For training purposes only!

4. How many kangaroos must be moved from one park to the other in order to get the same number of kangaroos in each park?



(A) 4 (B) 5 (C) 6 (D) 8 (E) 9

5. Which of these ladybugs has to fly away so that the rest of them have 20 dots in total?

(A) (B) (C) (D) (E)

6. Emilie builds towers in the following pattern

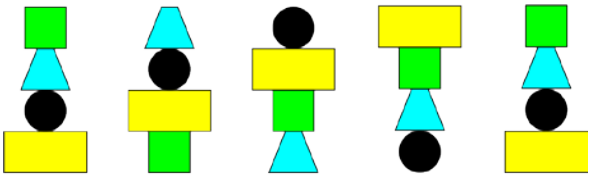

1 2 3 4 5

Which one will be the tower number 6?

(A) 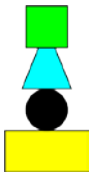 (B) 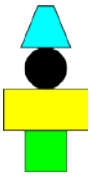 (C) (D) 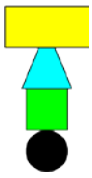 (E) 

Copyright © Canadian Math Kangaroo Contest, 2018. All rights reserved.
This material may be reproduced only with the permission of the Canadian Math Kangaroo Contest Corporation.

Do not duplicate or distribute without written permission from CMKC!