For training purposes only!

Part B: Each correct answer is worth 4 points

7. If ◇ + ◇ = 4 and Δ + Δ + Δ = 9, what is the value of ◇ + Δ = ?

(A) 2 (B) 3 (C) 4 (D) 5 (E) 6

8. Lisa has 4 pieces , but she only needs 3 for completing her puzzle frame . Which piece will be left over?

(A)  (B) (C) (D) (E) or

9. How many right hands are in this picture?

(A) 3 (B) 4 (C) 5 (D) 6 (E) 7

10. The dog went to its food following a path. In total it made 3 right turns and 2 left turns. Which path did the dog follow?

(A) 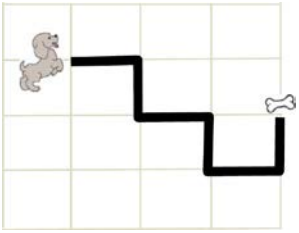

(B) 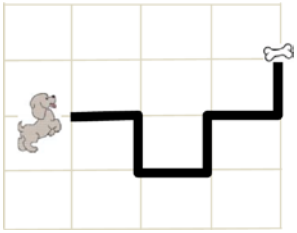

(C) 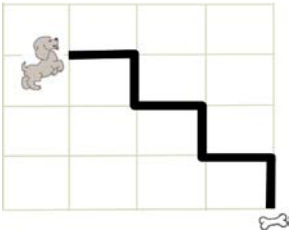

(D) 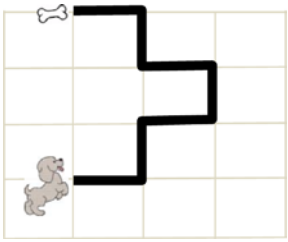

(E) 

Copyright © Canadian Math Kangaroo Contest, 2018. All rights reserved.
This material may be reproduced only with the permission of the Canadian Math Kangaroo Contest Corporation.

Do not duplicate or distribute without written permission from CMKC!