For training purposes only!

11. What number is in the box marked "?" ?

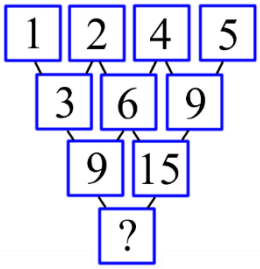

(A) 6 (B) 13 (C) 24 (D) 29 (E) Some other number

12. Charles cut a rope in three equal pieces and then made some equal knots with them. Which figure correctly shows the three pieces with the knots?

(A) 

(B) 

(C) 

(D) 

(E) 

Part C: Each correct answer is worth 5 points

13. How many circles and how many squares are covered by the blot in the picture?



(A) 1 circle and 3 squares

(B) 2 circles and 1 square

(C) 3 circles and 1 square

(D) 1 circles and 2 squares

(E) 2 circles and 2 squares

Copyright © Canadian Math Kangaroo Contest, 2018. All rights reserved.
This material may be reproduced only with the permission of the Canadian Math Kangaroo Contest Corporation.

Do not duplicate or distribute without written permission from CMKC!