For training purposes only!

14. Diana shoots three arrows at a target.

On her first try, she gets 6 points and the arrows land like this:

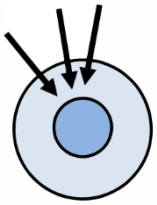

6 points

On her second try, she gets 8 points and the arrows land like this:

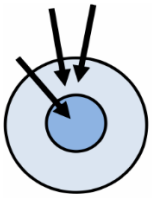

8 points

On her third try, the arrows land like this:

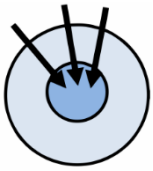

? points

How many points will she get the third time?

(A) 8 (B) 10 (C) 12 (D) 14 (E) 16

15. How many different numbers greater than 10 and smaller than 25 with distinct digits can we make by using any two of the digits 2, 0, 1, and 8?

(A) 4 (B) 5 (C) 6 (D) 7 (E) 8

16. Mark had some sticks of length 5 cm and width 1 cm 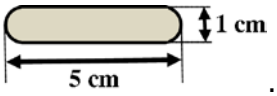

.

With the sticks he constructed the fence below.

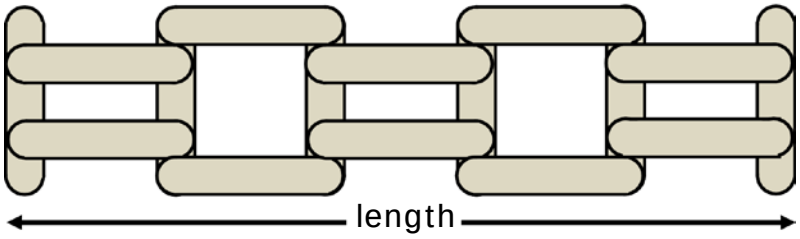

What is the length of the fence?

(A) 20 cm (B) 21 cm (C) 22 cm (D) 23 cm (E) 25 cm

Copyright © Canadian Math Kangaroo Contest, 2018. All rights reserved.
This material may be reproduced only with the permission of the Canadian Math Kangaroo Contest Corporation.

Do not duplicate or distribute without written permission from CMKC!