For training purposes only!

17. The road from Anna's house to Mary's house is 16 km long.

The road from Mary's house to John's house is 20 km long.

The road from the crossroad to Mary's house is 9 km long.

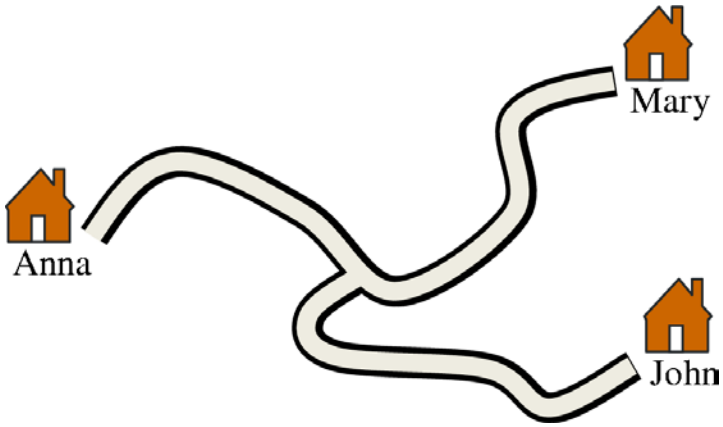

How long is the road from Anna's house to John's house?

(A) 7 km (B) 9 km (C) 11 km (D) 16 km (E) 18 km

18. There are four ladybugs on a 4×4 board. Two are asleep and do not move.

The other two ladybugs move one square every minute (up, down, left, or right). Here are pictures of the board for the first four minutes:



Minute 1



Minute 2



Minute 3



Minute 4

Which of these is a picture of the fifth minute (Minute 5)?

(A) 

(B) 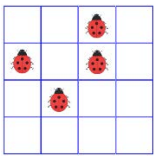

(C) 

(D) 

(E) 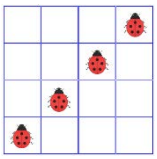

Copyright © Canadian Math Kangaroo Contest, 2018. All rights reserved.
This material may be reproduced only with the permission of the Canadian Math Kangaroo Contest Corporation.

Do not duplicate or distribute without written permission from CMKC!