For training purposes only!

Canadian Math Kangaroo Contest

Part A: Each correct answer is worth 3 points

1. Which cloud contains only numbers less than 7?

(A)

(B)

(C)

(D)

(E)

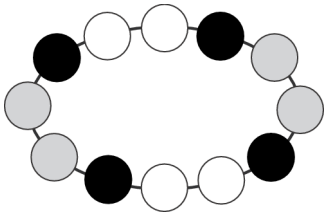

2. Which figure shows a part of this necklace?

(A) 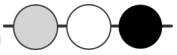
(B)
(C)
(D) 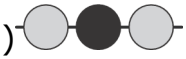
(E)

3. There are 12 children in a line. Lucy is the 7th from the front and Kim is the 2nd from the back. How many children are there between Lucy and Kim?

FRONT

(A) 2 (B) 3 (C) 4 (D) 5 (E) 6

4. Jorge pairs his socks so that the numbers match. How many pairs can he make?

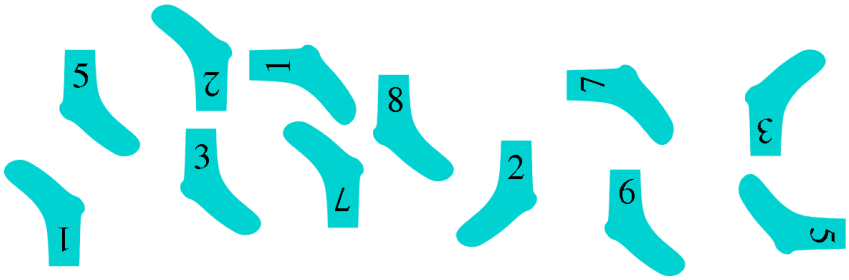

(A) 3 (B) 4 (C) 5 (D) 6 (E) 8

Copyright © Canadian Math Kangaroo Contest, 2019. All rights reserved.
This material may be reproduced only with the permission of the Canadian Math Kangaroo Contest Corporation.

Do not duplicate or distribute without written permission from CMKC!