For training purposes only!

CANADIAN MATH KANGAROO CONTEST PROBLEMS

PART A: EACH CORRECT ANSWER IS WORTH 3 POINTS

1. A kangaroo laid out 3 sticks like this ——— to make a shape. It is not allowed to bend or to break the sticks. Which shape could the kangaroo make?

(**A**) (**B**) (**C**) 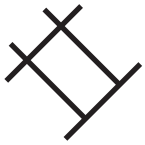 (**D**) (**E**)

2. Which of these paths is the longest?

(**A**) 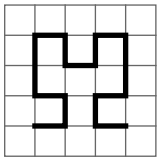 (**B**) 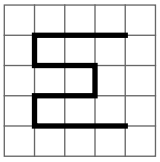 (**C**) 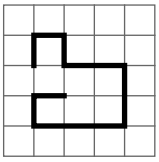 (**D**) 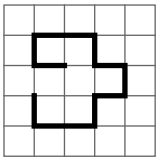 (**E**) 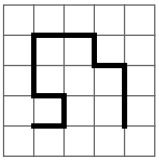

3. Four identical pieces of paper are placed as shown. Michael wants to make a hole that goes through all four pieces of paper.

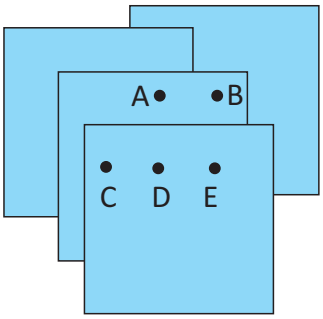

Where should Michael make the hole?

(**A**) A (**B**) B (**C**) C (**D**) D (**E**) E

Copyright @ Canadian Math Kangaroo Contest, 2021. All rights reserved.
This material may be reproduced only with the permission of the Canadian Math Kangaroo Contest Corporation.

Do not duplicate or distribute without written permission from CMKC!