For training purposes only!

4. Ann's teddy bear has the right eye covered with the ear. Its left hand is raised up and it has a triangle on its belly. Which of the following teddy bears belongs to Ann?



5. Edmund cut a ribbon as shown in the picture.

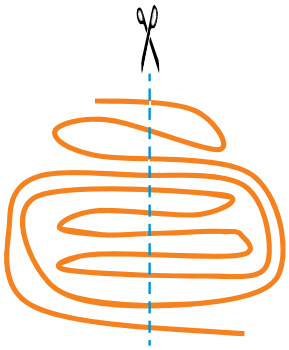

How many pieces of ribbon were there after the cut?

(**A**) 9 (**B**) 10 (**C**) 11 (**D**) 12 (**E**) 13

6. Ella puts on this t-shirt and stands in front of a mirror.

Which of these images does she see in the mirror?

(**A**)
(**B**) 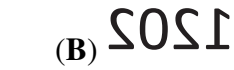
(**C**)
(**D**)
(**E**)

Copyright @ Canadian Math Kangaroo Contest, 2021. All rights reserved.

This material may be reproduced only with the permission of the Canadian Math Kangaroo Contest Corporation.
Do not duplicate or distribute without written permission from CMKC!