For training purposes only!

PART B: EACH CORRECT ANSWER IS WORTH 4 POINTS

7. In the picture you can see the necklace of Sophie. 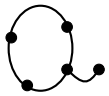
Which necklace is the necklace of Sophie?

(**A**) (**B**) (**C**) (**D**) (**E**) 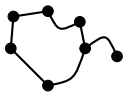

8. A bunch of toys are placed on weigh scales. A heavier toy is lower than a lighter toy.

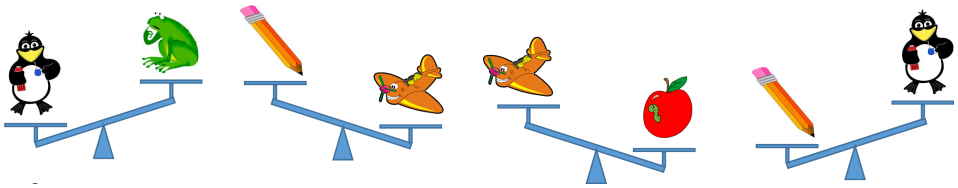

Which of the 5 toys is the heaviest?

(**A**) (**B**) (**C**) (**D**) (**E**)

9. Julie and Angela played a new game called "kangaball." They score goals that are worth 2 points. Julie scored 5 goals and Angela scored 9 goals.
How many more points than Julie did Angela have?

(**A**) 4 (**B**) 6 (**C**) 8 (**D**) 10 (**E**) 12

10. Which figure can be made from these two pieces? 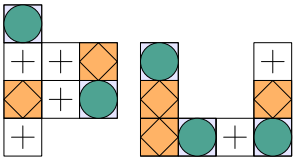

(**A**) 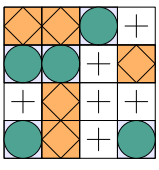 (**B**) 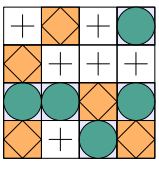 (**C**) 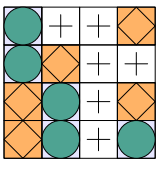 (**D**) 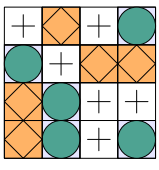 (**E**) 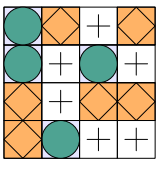

11. Kangie eats only apples on Monday, Wednesday and Friday. On Tuesday and Thursday he eats only mangoes. He eats nothing on Saturday and Sunday. He eats either 2 apples or 3 mangoes a day. How many fruits does Kangie eat in two weeks?

(**A**) 12 (**B**) 16 (**C**) 18 (**D**) 20 (**E**) 24

Copyright @ Canadian Math Kangaroo Contest, 2021. All rights reserved.

This material may be reproduced only with the permission of the Canadian Math Kangaroo Contest Corporation.
Do not duplicate or distribute without written permission from CMKC!