For training purposes only!

16. The picture shows two cogs, each with a black tooth. 
Where will the black teeth be after the small cog has made one full turn?

(**A**)  (**B**)  (**C**)  (**D**)  (**E**) 

17. Stan has five toys: a ball, a set of blocks, a chess game, a puzzle and a car. He puts each toy on a different shelf of the bookcase. The ball is higher than the blocks and lower than the car. The chess game is directly above the ball.

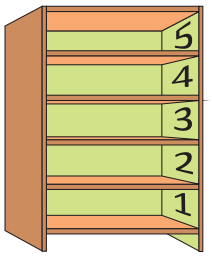

On which shelf can the puzzle *not* be placed?

(**A**) 1 (**B**) 2 (**C**) 3 (**D**) 4 (**E**) 5

18. Carl has a shape made up of four squares .
He places the shape on a grid figure so that it completely covers four of the grid cells.
Every time Carl does this, he adds 1 to the numbers in the four covered cells.
Starting with 0 in every cell of the grid, Carl places his shape several times as shown.

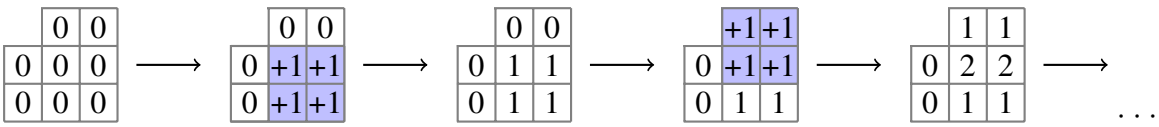

In the end, Carl hid some numbers with stickers: 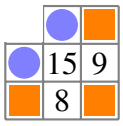

What is the sum of the numbers behind the three squares?

(**A**) 32 (**B**) 24 (**C**) 17 (**D**) 15 (**E**) 13

Copyright @ Canadian Math Kangaroo Contest, 2021. All rights reserved.
This material may be reproduced only with the permission of the Canadian Math Kangaroo Contest Corporation.

Do not duplicate or distribute without written permission from CMKC!