For training purposes only!

4. Justin wants to make sure each column has only 2 coins and that each row has only 2 coins.

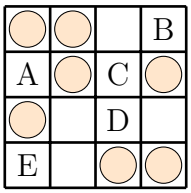

Where does he need to place the last coin?

(**A**) A (**B**) B (**C**) C (**D**) D (**E**) E

5. A monkey has torn a piece from Captain Jack's map.

Which is the missing piece? (You can rotate the pieces.)

(**A**) (**B**) 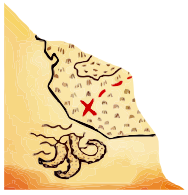 (**C**) (**D**) (**E**) 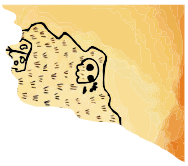

6. A piece of paper has 24 squares on it. Some ink spilled, as shown in the picture.



How many of the squares have ink on them?

(**A**) 16 (**B**) 17 (**C**) 18 (**D**) 19 (**E**) 20

Copyright © Canadian Math Kangaroo Contest, 2022. All rights reserved.
This material may be reproduced only with the permission of the Canadian Math Kangaroo Contest Corporation.

Do not duplicate or distribute without written permission from CMKC!