CANADIAN MATH KANGAROO CONTEST PROBLEMS

PART A: EACH CORRECT ANSWER IS WORTH 3 POINTS



1. How many circles are there in the figure?

(**A**) 5 (**B**) 6 (**C**) 7 (**D**) 8 (**E**) 9

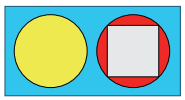

2. The figure shows 4 shapes viewed from the top.
What could be the view from the front?

(**A**) 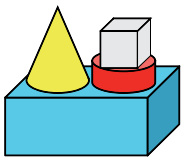 (**B**) 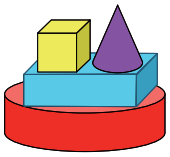 (**C**) 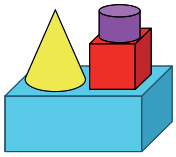 (**D**) 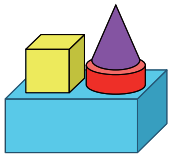 (**E**) 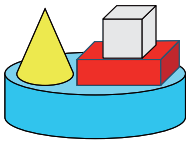

3. There are 24 squares in the figure.
Suchit has coloured some of the squares.
How many more squares need to be coloured
so that half of the squares are coloured?

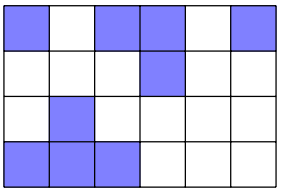

(**A**) 1 (**B**) 2 (**C**) 3 (**D**) 4 (**E**) 5

4. A disc with two holes is put on a clock.



Which figure can you get by spinning the disc over the clock?

(**A**) 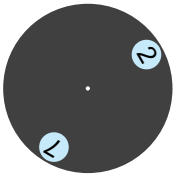

(**B**) 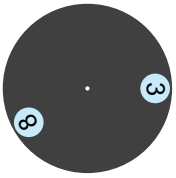

(**C**)

(**D**)

(**E**) 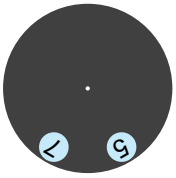

Copyright @ Canadian Math Kangaroo Contest. All rights reserved.

This material may be reproduced only with the permission of the Canadian Math Kangaroo Contest Corporation.

Do not duplicate or distribute without written permission from CMKC!