5. Mr Beaver rearranges the pieces to make a kangaroo figure.

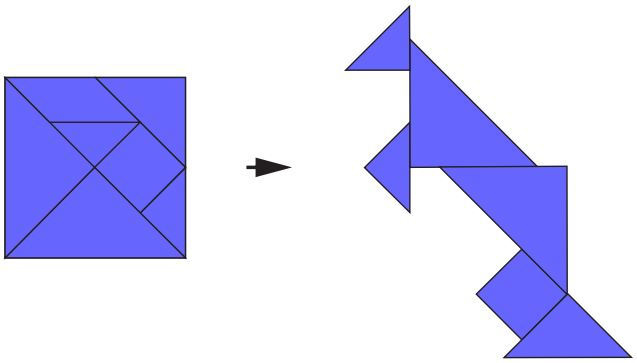

Which piece is not used?

(**A**)  (**B**) (**C**)  (**D**) (**E**)

6. Steven drives from point X to point Y.
At each crossing (red dot), he stops before continuing straight ahead.

In total, how many times does he stop?

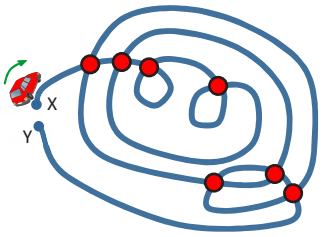

(**A**) 11 (**B**) 12 (**C**) 13 (**D**) 14 (**E**) 15

PART B: EACH CORRECT ANSWER IS WORTH 4 POINTS

7. There are 5 trees in a park.
A beaver is standing at one of the marked dots and from this place he sees exactly 2 complete trees.

Where is the beaver standing?

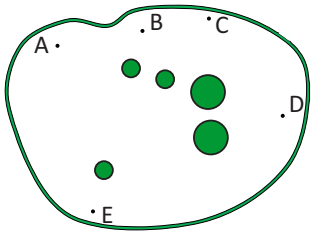

(**A**) at A (**B**) at B (**C**) at C (**D**) at D (**E**) at E

8. My boat has more than one (1) circle. It also has two (2) more triangles than squares.
Which boat is mine?

(**A**) (**B**) (**C**) (**D**) (**E**)

Copyright @ Canadian Math Kangaroo Contest. All rights reserved.
This material may be reproduced only with the permission of the Canadian Math Kangaroo Contest Corporation.

Do not duplicate or distribute without written permission from CMKC!