9. Robbie must turn right every time he reaches a wall, as shown:

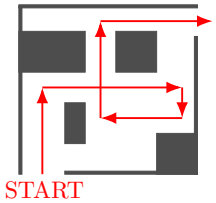

In the maze below, at which point will Robbie exit?

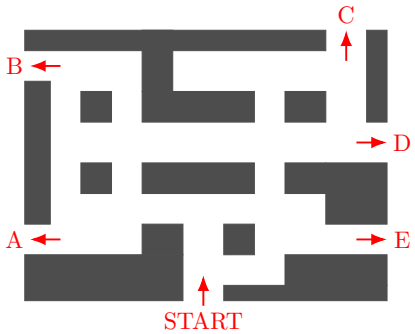

(**A**) A (**B**) B (**C**) C (**D**) D (**E**) E

10. The two tokens with the question mark have the same number.

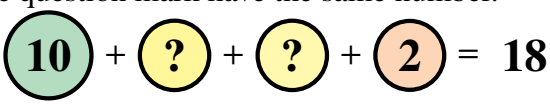

What is the missing number?

(**A**) 1 (**B**) 2 (**C**) 3 (**D**) 4 (**E**) 5

11. A sheet of paper is folded in half.
Square and round holes are punched.
What does the sheet look like after it is unfolded again?

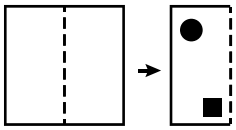

(**A**)  (**B**)  (**C**) 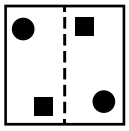 (**D**)  (**E**) 

12. Maria has 19 apples in 3 bags.
From each bag, she takes out the same number of apples.
Now the bags have 3, 4 and 6 apples.
How many apples did Maria take out of each bag?



(**A**) 1 (**B**) 2 (**C**) 3 (**D**) 4 (**E**) 5

Copyright @ Canadian Math Kangaroo Contest. All rights reserved.
This material may be reproduced only with the permission of the Canadian Math Kangaroo Contest Corporation.

Do not duplicate or distribute without written permission from CMKC!