PART C: EACH CORRECT ANSWER IS WORTH 5 POINTS

13. The map shows five villages A, B, C, D and E, along with the distances between them.

There are two villages which are the same distance from each other no matter which direction you take.

What are the two villages?

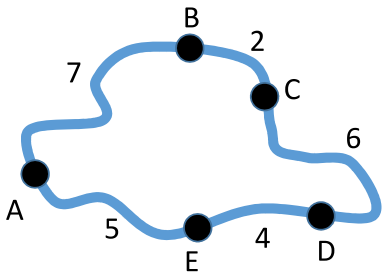

(**A**) B and E (**B**) B and D (**C**) C and E (**D**) A and C (**E**) A and D

14. Sam walks through a two-storey maze from the entrance to the exit, both located at floor 1 (the red arrows).

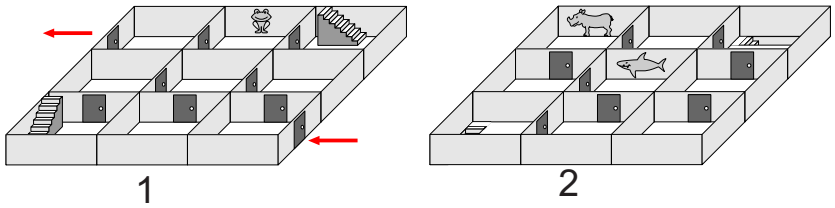

In what order will she find the wall stickers?

(**A**) (**B**) (**C**) (**D**) (**E**)

15. A lighting engineer in a theatre turned on coloured lights according to this plan:

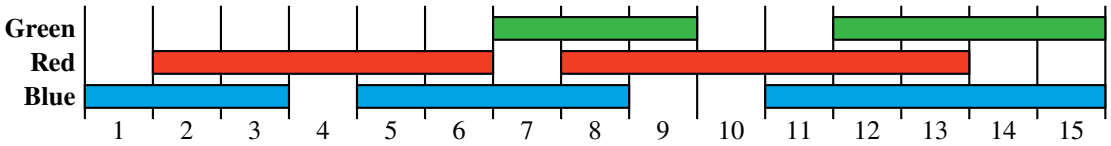

For the first minute, only the blue light was on.
For the last two minutes, only the green and blue lights were on.
For how many minutes were all three lights on together?

(**A**) 5 (**B**) 4 (**C**) 3 (**D**) 2 (**E**) 1

16. Emma finished third in a dance competition.
There were three dancers between her and last place.
In total, how many dancers took part in the competition?

(**A**) 4 (**B**) 5 (**C**) 6 (**D**) 7 (**E**) 8

Copyright @ Canadian Math Kangaroo Contest. All rights reserved.

This material may be reproduced only with the permission of the Canadian Math Kangaroo Contest Corporation.

Do not duplicate or distribute without written permission from CMKC!